HEM SHEELA MODEL SCHOOL

DURGAPUR

FINAL TERM EXAMINATION [2025-2026]

SCIENCE

CLASS-VI

Date:19/ 02 /2026

Time allowed: 03 Hours. *Maximum Marks: 80*

BIOLOGY (27 Marks)

22

1. Choose the correct order of germination 1
   a) Plumule → Radicle → Root → Shoot. b) Radicle → Root → Plumule → Shoot.
   c) Root → Radicle → Plumule → Shoot. d) Radicle → Plumule → Root → Shoot.
2. A student observed the journey of wheat before it became chapati. Choose the correct response representing the story of chapati from farm to plate? 1
   a) Threshing → Growing → Storage → Grinding → Transport → Eating.
   b) Growing → Threshing & winnowing → Storage → Grinding & packing → Transport.
   c) Growing → Storage → Threshing → Transport → Grinding → Eating.
   d) Growing → Grinding → Storage → Transport → Threshing → Eating.
3. Which of the following is not a response to stimuli? 1
   a) Withdrawing food after stepping on a thorn.
   b) Removing hand after touching a hot object.
   c) Blinking eyes are covering them to adjust to sudden light.
   d) Touching water to check for its hotness or coldness.
4. The disease shown in the figure is caused by the deficiency of which mineral? 1

   a) Sodium.
   b) Chlorine.
   c) Iodine.
   d) Phosphorus.
5. Arjun learned that cows could digest grass easily, but humans cannot digest the cellulose present in vegetables, even though both consume plant-based food. 1
   What best justifies why cellulose remains undigested in humans
   a) Humans chew food less efficiently than cows.
   b) Cellulose is harmful to the human digestive system.
   c) Cellulose dissolves only in the stomach of herbivores.
   d) Humans lack the enzyme cellulase required to break cellulose, unlike cows which have.
6. The following questions are given- Assertion (A) and Reason(R). Select the correct answer to these questions from the options given below: 1
   Assertion (A): The blue color of iodine starch solution disappears when juice or vitamin C series food is added.
   Reason(R): Vitamin C reacts with iodine and removes its blue color.
   a) Both A and R are true, and R is the correct explanation of A.
   b) Both A and R are true, but R is not the correct explanation of A.
   c) A is true but R is false. d) A is false but R is true.
7. A potted plant is kept in a dark room. Moist cotton is placed on one side of the pot. After a few days, the roots bend towards the moist cotton and grow downward. Later, the plant is exposed to long nights and starts flowering. 1
   Assertion (A): In the experiment, roots grow downward and towards the moist cotton placed on one side of the pot.
   Reason(R): Roots show positive geotropism and hydrotropism as they respond to gravity and moisture.
   a) Both A and R are true, and R is the correct explanation of A.
   b) Both A and R are true, but R is not the correct explanation of A.
   c) A is true but R is false. d) A is false but R is true.
8. A farmer waters his field regularly, but some seeds fail to germinate in a low-lying waterlogged area. 2
   a) State the factor required for germination which is missing in the waterlogged soil?
   b) Explain the reason scientifically.
   c) Name a seed that do not require light for germination
9. Meena often feels tired and gets mouth sores. Her friend Ravi rarely falls sick but has difficulty 2

seeing clearly at night. Their teacher explains that these problems are related to the deficiency of different vitamins.

a) Name the water-soluble vitamin whose deficiency can cause tiredness and mouth sores.

b) Identify the fat-soluble vitamin responsible for good vision in dim light. State another important function of this.

10. After the monsoon, Riya noticed jelly-like clusters floating in a pond near her house. A few weeks later, she observed tiny swimming organisms with long tails. 2

a) Mention two functions of the jelly-like covering.

b) Describe two advantages of having a tail in the tadpole stage.

11. Answer the following questions based on the picture given below: 3



a) Identify the two stages of the mosquito life cycle.

b) What are the main differences between these stages?

c) How does kerosene oil affect these stages?

12. After testing the blood sample of a person, a doctor found low red blood cells. He prescribed a particular mineral supplement to the person. He also advised him to include certain food item in his diet. Answer the following questions about the context: 3

a) Which deficiency disease is he suffering from?

b) Which mineral may be lacking in his diet and state one effect of this deficiency?

c) Give two food items that he should include in his diet.

13. During a sports day, Rohan feels dizzy. The teacher gives him a glass of glucose water instead of a bowl of porridge. 3

a) Explain why glucose was the better choice for Rohan's immediate relief?

b) Write the chemical equation which shows how Rohan's body will use the glucose once it reaches the cells.

c) Identify the long-term health risk for students who intake excess amount of sugar and starch daily.

14. Riya eats an apple before her exam, rice for lunch, and a bowl of raw salad in the evening. After eating the apple, Riya added a few drops of solution X to apple juice and rice water separately and heated the mixtures. She observed a colour change in one sample but not in the other. 5

a) Identify the type of carbohydrate present mainly in:

i) Apple ii) Rice iii) Raw salad

b) How do the carbohydrates found in apple and rice differ in terms of solubility and taste?

c) What colour change will Riya observe in apple juice and rice water respectively?

d) Name solution X.

PHYSICS (27 Marks)

= 25.5

1. Choose the correct option

i) A student requires two magnetic substances for a science project. He could find only one magnet and thus he decided to make another magnet from it. Which of these processes could be followed to create an additional magnet? 1

(a) Placing a piece of cardboard above the magnet

(b) Placing the nail close to a magnet without touching it

(c) Take a piece of iron nail and rub it repeatedly on the magnet

(d) Wrapping a piece of plastic around the magnet for a few hours

ii) 1

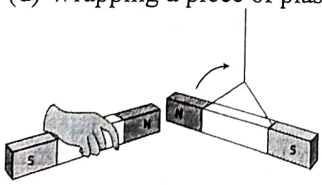

A student performs an activity where a bar magnet is suspended. Another bar magnet is held and moved close to it as shown in the image. Which of these statements can be concluded based on the activity?

(a) A magnet always repels other magnets

(b) Like poles of magnet always repel each other
(c) A bar magnet repels all other substances except iron
(d) North poles of a magnet always repels the south pole

iii) The image represents the different phases of the Moon appears from Earth. 1

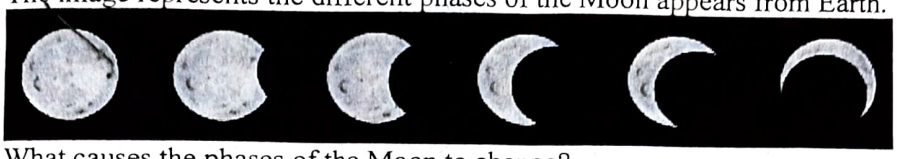

What causes the phases of the Moon to change?
(a) rotation of the Earth on its own axis (b) rotation of the Moon on its own axis
(c) revolution of the Moon around the Sun (d) revolution of the Moon around the Earth

iv) A student studies that stars, planets, the Moon, asteroids, etc. are considered as called celestial objects. What describes a celestial object? 1
(a) natural bodies that is outside the atmosphere of the Earth
(b) artificial bodies that are sent far into the solar system
(c) artificial bodies that revolves around the Earth
(d) natural bodies that revolves around the Earth

v) The planet Venus is known as _____planet? 1
a) Blue Planet b) Shining planet c) Red planet d) Jovian planet

vi) The table list a few substances. 1

1. Eraser
2. Nail
3. Pencil
4. Safety pin
5. Plastic Ruler

Which of these substances are likely to be attracted to a magnet?
(a) Nail and Pencil (b)Eraser and Pencil
(c)Nail and Safety pin (d)Plastic Ruler and Pencil

2.a) Pritam has a bar magnet where the poles are not labelled. He wants to determine the poles of the magnet. Which method would help in identifying the poles of the magnet? Explain. 2

b) Why the constellations are visible clearly in the rural area rather than urban area? 2

c) In the given figure three magnets are arranged in the given pattern. If magnet 1 is marked with one N pole then identify X and Y. Justify your answer. 2

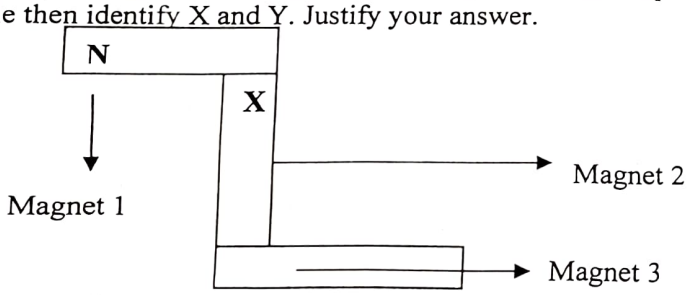

d) What is Light Year? Find the value of 8.4 light year in kilometer. 2

e) You work in a materials testing lab and your boss tells you to increase the temperature of a sample by 40°C. The only thermometer you can find at your workbench reads in °F. If the initial temperature of the sample is 68.2°F. What is its temperature in °C, when the desired temperature increase has been achieved? 2

3 a) The image represents two constellations marked as A and B. 1+1+1=3

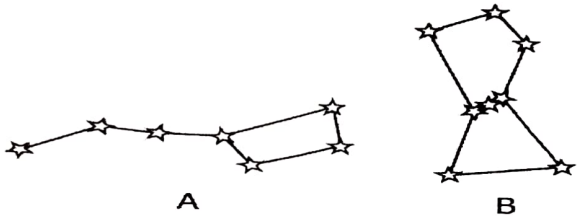

i) Identify the constellations marked as A and B.

ii) Mention the Indian names of both A and B

iii) Which constellation can locate the Pole star? Mention the position of Pole star.

b) Describe the process of converting a rectangular iron bar into a magnet using a bar magnet. What precautions we should follow during the process? 3

4. a) What is Self Demagnetization? Draw a labeled diagram to show how bar magnets should be kept to avoid self demagnetization. 3

b) What is the role of magnetic keeper in storing the magnets? 2

CHEMISTRY(26 Marks)

122

1. In which of the following case evaporation of water will be slowest? 1

(a) A tray of water kept in sunlight. (b) A kettle of water kept on a burner.

(c) A glass of water kept in a room. (d) A bucket of water kept on rooftop.

2. Which of the following mixtures would you be able to separate using the method of filtration? 1

(a) Oil in water (b) Cornflakes in milk (c) Salt in water (d) Sugar in milk

3. Which of the following change cannot be reversed? 1

(a) Hardening of cement (b) Freezing of ice cream

(c) Opening a door (d) Melting of chocolate

4. Which type of the following materials is used for making the front glass (wind screen) of a car? 1

(a) Transparent (b) Translucent (c) Opaque (d) All the above

5. Which one of the following is name of the elements having atomic no 13,14 1

(a) Sodium, magnesium (b) Aluminium, silicon

(c) Silicon, Sodium (d) Aluminium, magnesium

6. Given below are two statements labelled as Assertion (A) and Reason (R). Select the appropriate answer from the options given below: 1

(a) Both A and R are true and R is the correct explanation of A

(b) Both A and R are true but R is not the correct explanation of A.

(c) A is true but R is false.

(d) A is false but R is true.

Assertion (A): Sea water can't be used for domestic purposes.

Reason (R): Fresh water is frozen in glaciers and polar ice caps

7. Cutting down trees on a large scale impact the quality of the soil. Why do you think it is so? 2

8. Complete the following table: 2

Name of the element	Atomic No	Mass No	No of electrons	No of Neutrons
Phosphorous	15	31	?	?
Magnesium	12	?	?	12
Carbon	?	12	?	6
Oxygen	8	?	?	8

9. Match the objects given in Column I with the materials given in Column II. 2

COLUMN I	COLUMN II
(a) Surgical instruments	(i) Plastic
(a) Newspaper	(ii) Animal Product
(b) Electrical switches	(iii) Steel
(c) Wool	(iv) Plant product

10. Differentiate among opaque, translucent and transparent materials, giving one example of each. 3

11. (I) Write down the formulae of the following compounds 3

(a)Ammonium Nitrate (b) Aluminium chloride

(c) Sodium sulphate (d) Magnesium Hydroxide

(II) Does cations and anions are same? If not, why?

12. (a) Why does mirror in the bathroom become hazy(fogged) after a hot shower in winter? 3

(b) What would happen if water did not evaporate easily?

13 Answer the following questions: 5

(a) Write one importance of water cycle

(b) Can you relate the presence of nasal hair to any separation processes?

(c) Name the compounds - $CaCO_3$, NaOH

(d) Why can't a tumbler made of cloth be used for storing water?

(e) "All lustrous materials are not metals." Explain